LYCEUM INTERNATIONAL SCHOOLS

LYCEUM ASSESSMENTS

First Semester Examination - March 2022

Subject : **Mathematics**

Class : **3 ……..…**

Duration : **2 periods**

Candidate's name : **.....…….....** ***Date :*** **.....….....**

Instructions : $\frac{1}{2}$ mark will be deducted for missing or wrong units.

1. Answer the following.

(i) 98 in words ----------

(ii) 52nd in words ----------

(iii) Nearest ten of 64 ----------

(iv) Nearest hundred of 870 ----------

(v) The number halfway between 400 and 500 ----------

(vi) The even number before 21 ----------

(vii) Number after 399 ----------

(viii) 700 + 90 + 1 = ----------

(ix) Twice 45 ----------

(x) 10 more than 389 ----------

[Total = 2 × 10 = 20 marks]

2. (i) What fraction of each shape is coloured?

(a) 

(b) 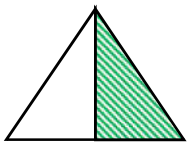

(2 marks)

(ii) Colour,

(a) $3\frac{1}{2}$

(b) $2\frac{3}{4}$ 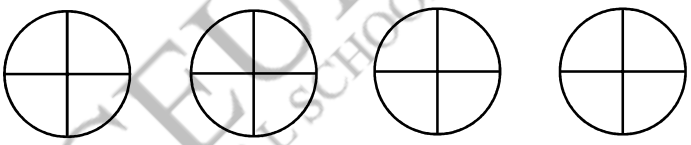

(2 × 2 = 4 marks)

(iii) Underline the correct statement.

(a) One half is greater than one quarter.

(b) Three quarters are less than one half.

(1 mark)

(iv) Tick the shapes which show thirds.

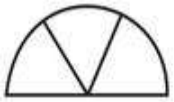

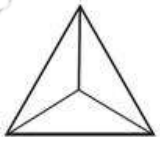

(2 marks)

(v) Colour the second shape exactly the same.

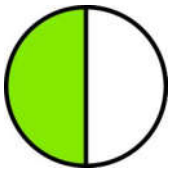 = 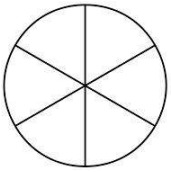

(1 mark)
[Total = 10 marks]

3. Fill in the blanks.

(i) 326 + 9 = ----------

(ii) 853 + 34 = ----------

(iii) ---------- + 50 = 485

(iv) 200 + ---------- = 958

(v) 605 + 11 = ----------

(vi) 145 − 60 = ----------

(vii) 222 − 9 = ----------

(viii) ---------- − 400 = 347

(ix) 902 − 896 = ----------

(x) 410 + 33 + 6 = ----------

[Total = 10 marks]

4. Write the missing numbers.

(i)

0	4	8	----------	16	----------

(ii)

750	700	----------	600	550	----------

(iii)

----------	347	447	----------	647	747

[Total = 6 marks]

5. (i) Write each amount in pence or pounds and pence.

(a) £ 5.23 = ----------

(b) ---------- = 208 p

(2 marks)

(ii) How much?

£ 10 | £ 5 | 20p | 10p | 5p | 2p = £ . ----------

(1 mark)

(iii) How many 20p coins are needed to make £ 2 ?

(1 mark)

(iv) Tick the coins to buy £ 3.15

£ 2 | £ 2 | £ 1 | 20p | 10p | 10p | 5p | 2p

(2 marks)

(v) Dom had £ 2 and he spent £ 1.28.

How much has he left? ----------

(2 marks)
[Total = 8 marks]

6. Colour to match.



[Total = 2 × 4 = 8 marks]

7. Find the answer and match.

(i)	3	×	8	=	☐	•	•	9
(ii)	☐	×	4	=	36	•	•	3
(iii)	14	×	2	=	☐	•	•	8
(iv)	5	×	☐	=	15	•	•	24
(v)	20	×	10	=	☐	•	•	10
(vi)	32	÷	4	=	☐	•	•	28
(vii)	☐	÷	5	=	6	•	•	200
(viii)	☐	÷	10	=	7	•	•	23
(ix)	30	÷	3	=	☐	•	•	30
(x)	46	÷	2	=	☐	•	•	70

[Total = 10 marks]

8. Colour the numbers with

(i) 2 tens in red

(ii) 6 hundreds in blue

(iii) 9 units in green

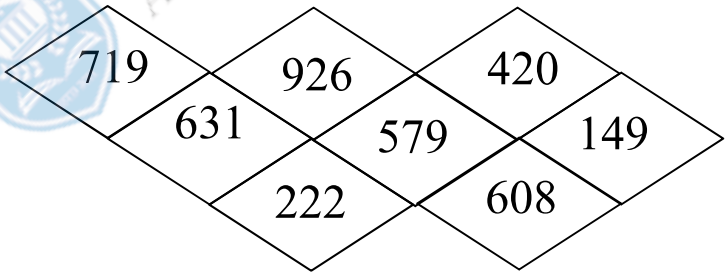

[Total = 8 marks]

LYCEUM INTERNATIONAL SCHOOLS
LYCEUM ASSESSMENTS

9. (i) One book cost 35p.

What is the cost of 4 books ?

(ii) There are 500 roses in a box.

Half of the roses are red.

How many roses are red?

(iii) Brian has 342 stamps.

Roman has 500 stamps.

How many stamps are there altogether?

[Total = 2 × 3 = 6 marks]

10. Make 1000.

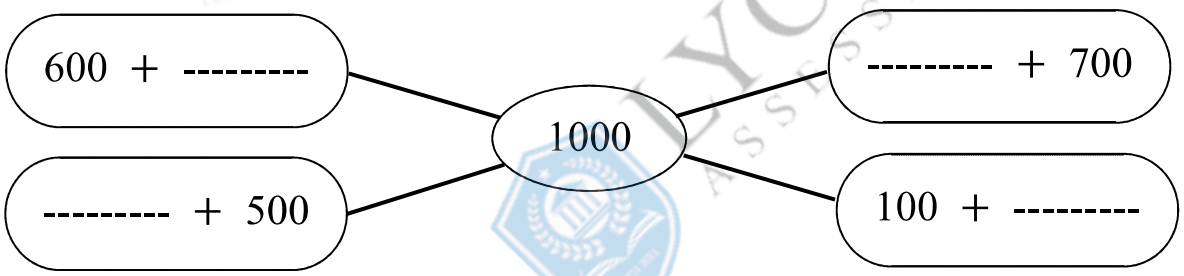

[Total = 4 marks]

For teacher's reference only.

<u>Distribution of marks</u>:

- **Continuous Assessment of Multiplication** **05%**
- **Oral Test** **05%**
- **First Semester Paper** **90%**
- **Total** **100%**

END

Ref : IM