LYCEUM INTERNATIONAL SCHOOL

LYCEUM ASSESSMENTS

First Semester Examination - March 2023

Subject : **Mathematics**

Class : **3 ……**

Duration : **2 periods**

Candidate's name : **……..... *Date :* .....….....**

Instructions: $\frac{1}{2}$ mark will be deducted for missing or wrong units.

1. Answer the following.

(i) Nearest ten of 78 ----------

(ii) Nearest hundred of 489 ----------

(iii) The number halfway between 700 and 900 ----------

(iv) 45 in words ----------

(v) 23rd in words ----------

(vi) 2 more than 379 ----------

(vii) Number before 800 ----------

(viii) The odd number before 17 ----------

(ix) 200 + 50 + 6 = ----------

(x) Double 32 ----------

[Total = 2 × 10 = 20 marks]

2. Following answers in the boxes are written by David for his Maths paper. Mark them (✓) or (×).

(i)	3	×	9	=	$\boxed{27}$		(---------)
(ii)	$\boxed{30}$	÷	5	=	7		(---------)
(iii)	11	×	2	=	$\boxed{22}$		(---------)
(iv)	28	÷	4	=	$\boxed{8}$		(---------)
(v)	5	×	$\boxed{5}$	=	25		(---------)
(vi)	$\boxed{60}$	÷	10	=	6		(---------)
(vii)	4	×	$\boxed{6}$	=	16		(---------)
(viii)	$\boxed{17}$	÷	3	=	6		(---------)
(ix)	10	×	10	=	$\boxed{0}$		(---------)
(x)	16	÷	2	=	$\boxed{8}$		(---------)

[Total = 10 marks]

3. Fill in the blanks.

(i) 599 – 70 = ----------

(ii) 365 – 11 = ----------

(iii) ---------- – 200 = 245

(iv) 702 – 695 = ----------

(v) 642 + 9 = ----------

(vi) 269 + 11 = ----------

(vii) 123 + 45 = ----------

(viii) 220 + 31 + 5 = ----------

(ix) ---------- + 20 = 575

(x) 400 + ---------- = 820

[Total = 10 marks]

4. Match.

(i) $\frac{1}{2}$ of 50	●	● 8
(ii) Double 16	●	● 25
(iii) One quarter of 32	●	● 300
(iv) Double 150	●	● 250
(v) Half of 500	●	● 32

[Total = 2 × 5 = 10 marks]

5. (i) Colour,

(a) two thirds. (b) three fifths. (c) six tenths.

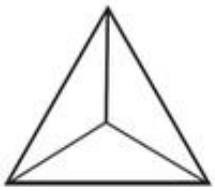
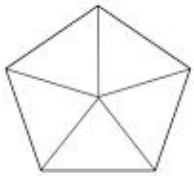
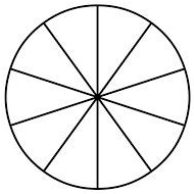

(3 marks)

(ii) How many of these shapes are coloured?

(a) 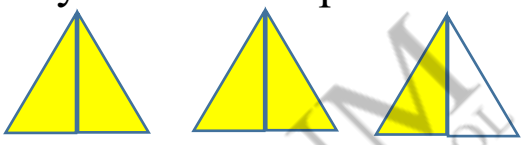 ----------

(b) 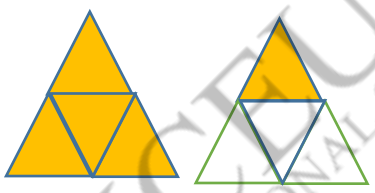 ----------

(2 × 2 = 4 marks)

(iii) Seven tenths of a shape is blue. What fraction of the shape is not blue? ----------

(1 mark)

[Total = 8 marks]

6. Circle.

(i) Multiples of 5

25 , 72 , 30 , 58 , 65

(ii) Numbers with 2 units

410 , 372 , 934 , 242 , 735

(iii) Multiples of 2

94 , 61 , 28 , 57 , 80

(iv) Numbers with 5 hundreds

957 , 518 , 825 , 597 , 168

[Total = 10 marks]

7. (i) Write each amount in pence or pence and pounds.

(a) £ 3.61 = ----------

(b) ---------- = 585 p

(c) £ 4.20 = ----------

(d) ---------- = 709 p

(4 marks)

(ii) How much?

£ 20 | £ 5 | 50p | 20p | 5p = £ ____.____

(2 marks)

(iii) How much money left?

(a) Brian had £ 1 and he spent 48p.

(b) Jane had £ 2 and she spent £ 1.25.

(2 × 2 = 4 marks)
[Total = 10 marks]

8. Write the missing numbers.

(i)

235	335	435	---------	---------	735

(ii)

900	850	---------	---------	700	650

(iii)

---------	---------	507	517	527	537

[Total = 6 marks]

9. (i) Anne has 245 books.

Her brother has 50 books.

How many books are there altogether?

(ii) There were 168 greeting cards on the shelf.

35 cards were sold.

How many greeting cards are on the shelf now?

(iii) One pen costs 25p.

What is the cost of 2 pens?

[Total = 2 × 3 = 6 marks]

For teacher's reference only.

<u>Distribution of marks</u>:

- **Continuous Assessment of Multiplication** **05%**
- **Oral Test** **05%**
- **First Semester Paper** **90%**
- **Total** **100%**

END