LYCEUM INTERNATIONAL SCHOOL

LYCEUM ASSESSMENTS

First Semester Examination - March 2025

Subject : **Mathematics**

Class : **3 ……**

Duration : **2 periods**

Candidate's name : ..... ***Date :*** …….....….....

- **Answer all questions.**

1. (i) 9 + 7 + 1 = ----------

(ii) 400 + 30 + 1 > ---------- + 20 + 3

(iii) $\frac{1}{2}$ of 8 = ----------

(iv) Write 132 to the nearest 10 = ----------

(v) Write 763 to the nearest 100 = ----------

(vi) $\frac{1}{8}$ of 80 = ----------

(vii) Double 7 = ----------

(viii) How many right angles are there in this shape ☐ ? ----------

(ix) 75 + ---------- = 100

(x) ---------- × 8 = 24

[Total = 2 × 10 = 20 marks]

2. (i) Compare the fractions using > or <.

(a) $\frac{1}{6}$ ------- $\frac{1}{5}$ (b) $\frac{1}{3}$ ------- $\frac{1}{6}$ (c) $\frac{1}{6}$ ------- $\frac{1}{4}$

(d) $\frac{1}{2}$ ------- $\frac{1}{4}$ (e) $\frac{1}{8}$ ------- $\frac{1}{9}$ (f) $\frac{1}{3}$ ------- $\frac{1}{10}$

(6 marks)

(ii) What fraction of each figure is coloured?

(a)  $\frac{\square}{\square}$ ----------

(b) 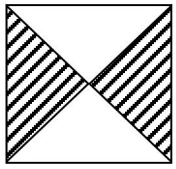 $\frac{\square}{\square}$ ----------

(c) 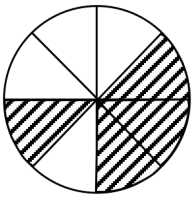 $\frac{\square}{\square}$ ----------

(d) 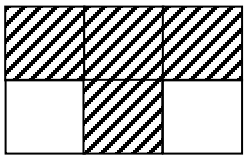 $\frac{\square}{\square}$ ----------

(2 × 4 = 8 marks)

(iii) Complete the following to make one whole.

(a) $\frac{6}{8} + \frac{\square}{8} = 1$

(b) $\frac{3}{10} + \frac{\square}{10} = 1$

(c) $\frac{1}{3} + \frac{\square}{3} = 1$

(2 × 3 = 6 marks)
[Total = 20 marks]

LYCEUM INTERNATIONAL SCHOOL
LYCEUM ASSESSMENTS

3. Find the perimeter of the following shapes.
(Use the given measurements)

(i)

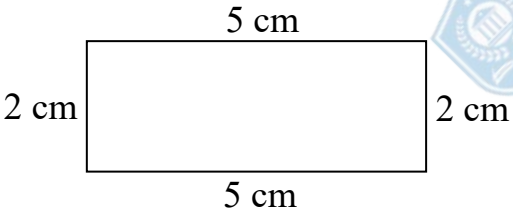

(ii)

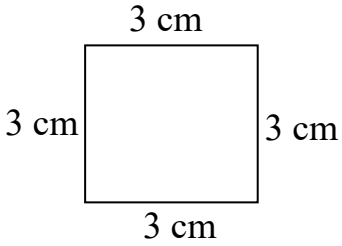

(iii)

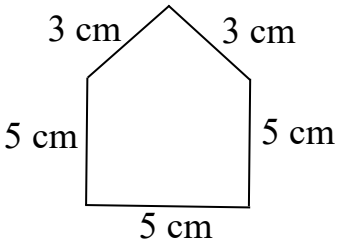

(iv)

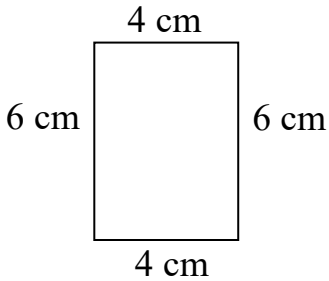

[Total = 2 × 4 = 8 marks]

4. Match.

(i) 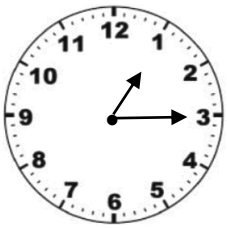 • • (a) half past 3

(ii) 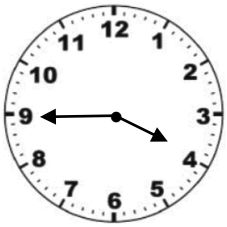 • • (b) quarter past 1

(iii) **4 : 20** • • (c) ten minutes to 6

(iv)  • • (d) quarter to 4

(v) **3 : 30** • • (e) twenty minutes past 4

[Total = 2 ×5 = 10 marks]

5. (i) Colour the multiples of 4 in red colour.

10	8	18	20

(ii) Colour the multiples of 5 in blue colour.

6	25	12	30

(iii) Colour the multiples of 2 in yellow colour.

12	9	15	20

[Total = 2 × 3 = 6 marks]

LYCEUM INTERNATIONAL SCHOOL
LYCEUM ASSESSMENTS

6. Read and colour the correct shape.

(i) Hexagon (a) 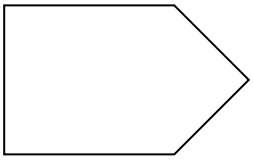 (b) 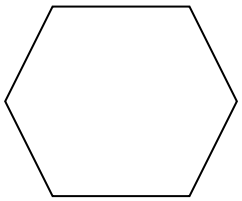

(ii) Quadrilateral (a) (b) 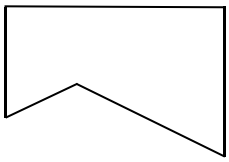

(iii) Cylinder (a)  (b) 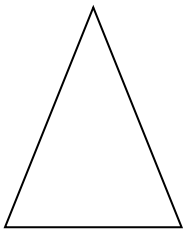

(iv) Pentagon (a)  (b) 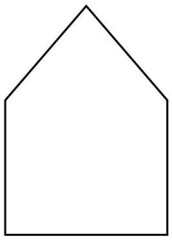

(v) Triangular Prism (a) 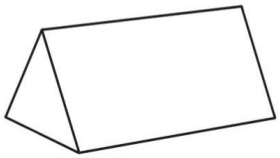 (b) 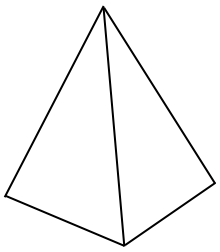

[Total = 5 marks]

LYCEUM INTERNATIONAL SCHOOL
LYCEUM ASSESSMENTS

7. Answer these additions using partitioning.

(i) 63 + 28 = --------

(ii) 83 + 21 = --------

[Total = 2 × 2 = 4 marks]

8. Use the grid method to answer these multiplications.

(i) 5 × 31 = ----------

×		
5		

= ----------

(ii) 4 × 24 = ----------

×		
4		

= ----------

[Total = 2 × 2 = 4 marks]

9. Write each set of numbers in order from the largest to the smallest.

(i) 321, 121, 823 ----------

(ii) 983, 933, 963 ----------

(iii) 481, 438, 538 ----------

[Total = 3 marks]

10. (i) Colour the container that holds **more**.

(a) 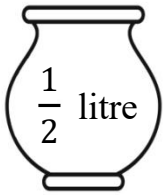

or

(b)

or 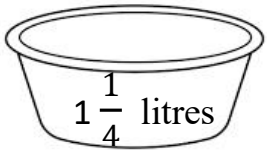

(2 × 2 = 4 marks)

(ii) How many millilitres of liquid is in each measuring cylinder.

(a) 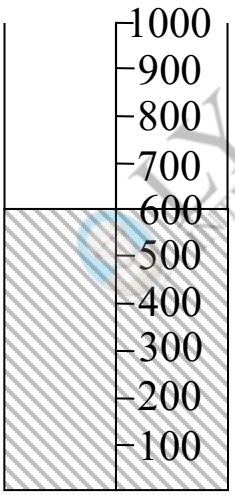

---------- ml

(b) 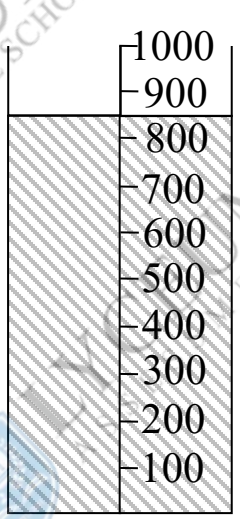

---------- ml

(c) 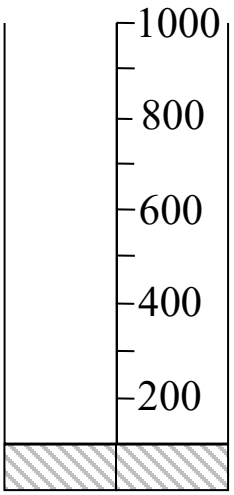

---------- ml

(2 × 3 = 6 marks)

[Total = 10 marks]

For teachers' reference only.

Distribution of marks:

- **Continuous Assessment of Multiplication** **05%**
- **Oral Test** **05%**
- **First Semester Paper** **90%**
- **Total** **100%**

END

Ref : LYA.ITE.CS