LYCEUM INTERNATIONAL SCHOOL

LYCEUM ASSESSMENTS

First Semester Examination - March 2024

Subject : **Mathematics**

Class : **3 ……..…**

Duration : **2 periods**

Candidate's name : ..... ***Date :*** …….....….....

- **Answer all questions.**

1. (i) What fraction of each shape is coloured?

(a)

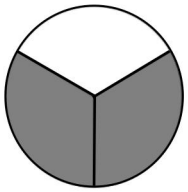

(b)

(c)

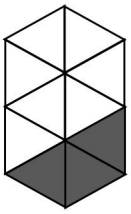

--- --- ---

(6 marks)

(ii) Colour.

(a) two forth

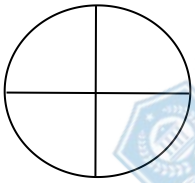

(b) $1\frac{1}{2}$

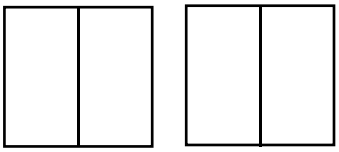

(c) four tenth



(3 marks)

(iii) One tenth of a shape is red. What fraction of the shape is not red?

(1 mark)

[Total = 10 marks]

2. Colour the stars with,

(i) 2 hundreds in red.

(ii) 5 tens and 7 units in green.

(iii) 4 units in blue.

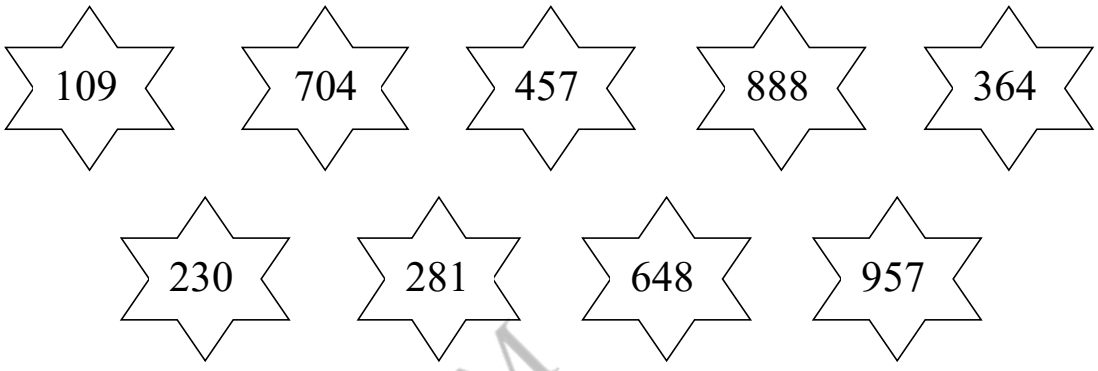

[Total = 6 marks]

3. Complete.

(i) Add 40 and 21 - ----------

(ii) Colour the largest number - 811 804 809

(iii) Divide 800 by 100 - ----------

(iv) Circle the even numbers - 16 21 30 91

(v) Write 9th in words - ----------

(vi) Write to the nearest 10 - 22 ----------

45 ----------

(vii) Half of 500 - ----------

(viii) $\frac{1}{10}$ of 70 - ----------

(ix) Write the number before 90 - ----------

(x) 600 + 90 + 1 = ----------

[Total = 2 × 10 = 20 marks]

LYCEUM INTERNATIONAL SCHOOL
LYCEUM ASSESSMENTS

4. Lay the following amounts using the given notes and coins.

£20	£10	£5	£2	£1	£1	50p	50p	20p	10p	5p

(i) £ 15.75 - ---------- ---------- ---------- ---------- ---------- ----------

(ii) £ 10.80 - ---------- ---------- ---------- ---------- ---------- ----------

(iii) £ 7 - ---------- ---------- ---------- ---------- ---------- ----------

(iv) £ 6.80 - ---------- ---------- ---------- ---------- ---------- ----------

(v) £ 35.65 - ---------- ---------- ---------- ---------- ---------- ----------

[Total = 2 × 5 = 10 marks]

5.

Yellow Flowers 8	Red Flowers 12	Blue Flowers 4

(i) How many Red flowers are there in 10 boxes? ----------

(ii) How many Blue flowers are there in 6 boxes? ----------

[Total = 2 marks]

6. Write the order.

(i) Start with the lightest

762g	365g	666g	258g
---	---	---	---

(ii) Start with the smallest

691	476	205	967
---	---	---	---

[Total = 2 marks]

7. Complete the number stories.

(i) 25 6 31

Make 2 addition number stories and subtraction number stories using the above numbers.

(a) -------- + -------- = -------- (b) -------- + -------- = --------

(c) -------- - -------- = -------- (d) -------- - -------- = --------

(ii) Make 2 division number stories and 2 multiplication stories.

60 6 10

(a) -------- × -------- = -------- (b) -------- × -------- = --------

(c) -------- ÷ -------- = -------- (d) -------- ÷ -------- = --------

[Total = 2 × 4 = 8 marks]

8. (i) Write each amount in pounds and pence.

(a) 324 p - ---------- (b) 520 p - ----------

(ii) Write each amount in pence.

(a) £ 2.58 - ---------- (b) £ 8.06 - ----------

[Total = 2 × 4 = 8 marks]

9. Write the missing numbers.

(i)

0	2	4	----------	8	----------

(ii)

850	800	----------	700	650	----------

(iii)

----------	248	348	----------	548	648

[Total =2 × 3 = 6 marks]

10. Match.

(i)	Twice 20	2	2	(a) 100
(ii)	Double 50	2	2	(b) 80
(iii)	Half of 16	2	2	(c) 40
(iv)	Multiply 20 by 4	2	2	(d) 8

[Total = 2 × 4 = 8 marks]

11. (i) Jack has 650 pencils.

He gives 250 pencils for his sister.

How many are remaining?

(ii) There are 123 marbles in the bowl.

Another 45 marbles on the floor.

How many marbles altogether?

(iii) One book cost 20p.

What is the cost of 5 books?

(iv) Share 30 books among 5 children.

How many books will one children get?

[Total = 2 × 4 = 8 marks]

12. Underline.

(i) multiples of 2 - 12 , 25 , 33 , 22

(ii) multiples of 4 - 36 , 15 , 81 , 28

[Total = 2 marks]

For teachers' reference only.

Distribution of marks:

- **Continuous Assessment of Multiplication** **05%**
- **Oral Test** **05%**
- **First Semester Paper** **90%**
- **Total** **100%**

END

Ref : LYA.ITE.CS