LYCEUM
INTERNATIONAL SCHOOLS

First Semester Examination - March 2020

Subject	**:**	**Mathematics**
Class	**:**	**3 .....**
Duration	**:**	**2 periods**
Candidate's name	**:**	**..... *Date* : .....**

Instructions : ½ mark will be deducted for missing or wrong units.

(1) Complete the following.

(i) The even number after 16 ----------

(ii) Colour the numbers with a 7 in the tens place.

691 172 307 178 957

(iii) Write 40 in words ----------

(iv) Colour the largest number 911 901 909

(v) Add 38 and 21 = ----------

(vi) Divide 600 by 100 = ----------

(vii) $\frac{1}{10}$ of 70 = ----------

(viii) Write to the nearest 10

(a) 52 = ---------- (b) 65 = ----------

(ix) Tick (☐) the correct answer

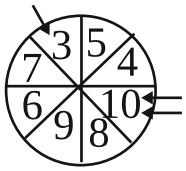

(a) 23 (b) 13 (c) 30

(x) Tick (☐) the picture below that shows $\frac{2}{2}$

(a) ☐

(b) 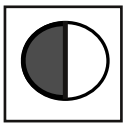 ☐

(c) 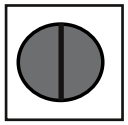 ☐

[Total =2 × 10 = 20 marks]

contd.....to page 2

Grade 3 Mathematics contd.....from page 1

(2) Use the numbers in the grid to answer the questions.

600	13	2	800
18	75	400	25
200	85	15	7

List pairs of numbers that add to make

(a) 1000 ○ + ○ ○ + ○

(b) 20 △ + △ △ + △

(c) 100 ▭ + ▭ ▭ + ▭

[Total = 6 marks]

(3) Colour the correct answer.

(i)	439 – 30	409	473
(ii)	5 × 7	35	65
(iii)	24 multiplied by 2	84	48
(iv)	46 subtract 21	25	67
(v)	10 × 9	90	60
(vi)	How much ? £1 10p 10p 2p	122p	132p
(vii)	Add 85 and 7	88	92
(viii)	68 – 38	30	106

[Total = 8 marks]

contd.....to page 3

LYCEUM INTERNATIONAL SCHOOLS

(4) (i) Write in pounds and pence.

(a) 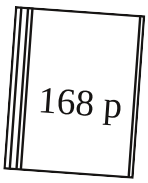

---------- (b) 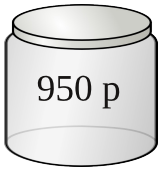

(2 marks)

(ii) Write in pence.

(a)

---------- (b)

(2 marks)

(iii) List the **coins** to buy the watch.

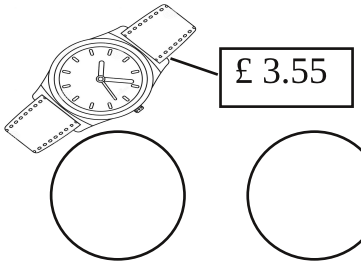

(3 marks)

(iv) Colour the notes and coins to buy the doll.

£ 20 | £ 10 | £ 5

£ 1 | 10p | 2p | 1p

(2 marks)

[Total = 9 marks]

(5) Fill in the blanks.

(i) Half of 40 = ----------

(ii) 24 ÷ 4 = ----------

(iii) Double 30 = ----------

(iv) 53 – ---------- = 20

(v) 68 subtract 8 = ----------

[Total = 2 × 5 = 10 marks]

contd.....to page 4

LYCEUM INTERNATIONAL SCHOOLS

Grade 3 Mathematics contd.....from page 3

(6) Use the numbers in each flower to make a number pattern.

(i) (a)

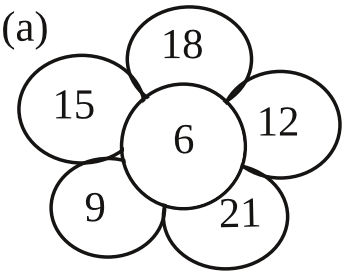

6 -------- -------- -------- --------- --------

(b)

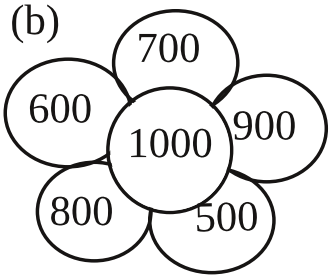

1000 -------- -------- -------- --------- --------

(½ × 10 = 5 marks)

(ii) Fill in the boxes.

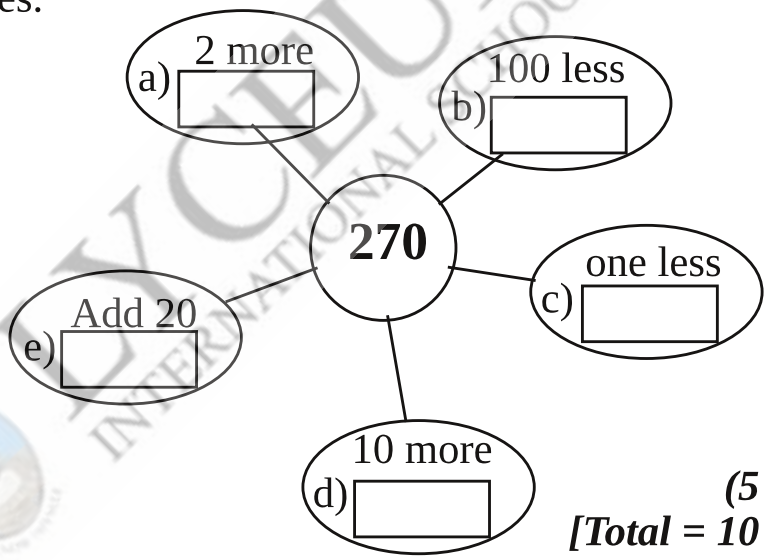

(5 marks)
[Total = 10 marks)

(7) Complete the number stories.

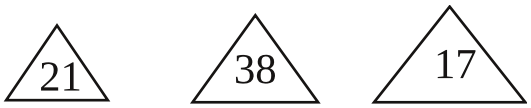

(i) 21 + 17 = ☐

(ii) 17 + ☐ = 38

(iii) 38 – 21 = ☐

(iv) ☐ – 17 = ☐

[Total = 5 marks]

contd.....to page 5

Grade 3 Mathematics contd.....from page 4

(8) What fraction of each shape is **not** coloured ?

(i) (a)

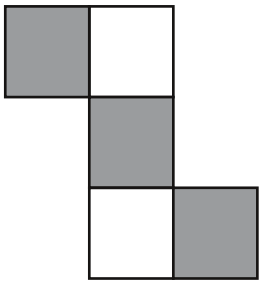

(b)

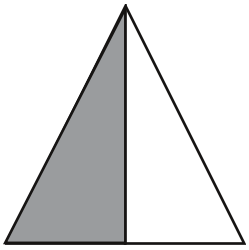

(c)



--- --- ---

(3 marks]

(ii) Colour

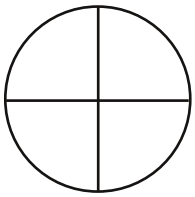

(a) two parts blue

(b) one part red

(2 marks)

(iii) What fraction of the given shape above is

(a) blue ? ---------- (b) **not** coloured ? ----------

(2 marks)

(iv) Colour

$2\frac{1}{2}$

(2 marks)

[Total = 9 marks]

(9) Write the correct answer.

(i) (a)



9 ÷ -------- = 3

(b)

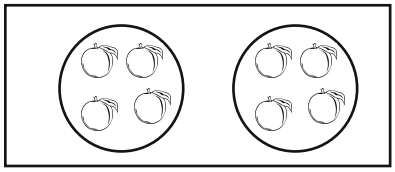

-------- ÷ 2 = --------

(3 marks)

(ii) (a) Divide 13 oranges equally among 3 mats.

(3 marks)

(b) How many are left over ? ----------

(1 mark)

[Total = 7 marks]

contd.....to page 6

LYCEUM INTERNATIONAL SCHOOLS

Grade 3 Mathematics contd.....from page 5

(10)



(i) Mary and Susan both buy a computer.

The computer costs £ 420. How much does each have left ?

(a) Mary

(b) Susan

(4 marks)

(ii) Who has the most money ? ----------

(iii) Who has the least money ? ----------

(2 marks)

[Total = 6 marks]

<u>For the teachers' reference only.</u>

Distribution of marks :

- Oral test paper 05%
- Continuous assessment on multiplication 05%
- First Semester paper 90%
- Total 100%

END

LYCEUM INTERNATIONAL SCHOOLS

LYCEUM
INTERNATIONAL SCHOOLS

First Semester Examination- March 2020

Mathematics (Oral Examination) - Teacher's Copy

Grade 3

---

* The question paper is based on multiplication tables 2 , 3 , 4 , 5 , 6 and 7 for oral testing. ½ × 10 = 5 marks are allocated for each option (1, 2, 3)
Please refer the "Instructions to Examiners" for further details.

* ***Option 1***

(i)	3 × 5	(ii)	1 × 7
(iii)	2 × 7	(iv)	6 × 2
(v)	3 × 10	(vi)	7 × 3
(vii)	5 × 9	(viii)	4 × 8
(ix)	6 × 0	(x)	6 × 4

Or

* ***Option 2***

(i)	5 × 3	(ii)	3 × 7
(iii)	2 × 8	(iv)	1 × 6
(v)	7 × 5	(vi)	5 × 0
(vii)	4 × 4	(viii)	5 × 4
(ix)	6 × 7	(x)	2 × 10

Or

* ***Option 3***

(i)	7 × 7	(ii)	2 × 9
(iii)	3 × 9	(iv)	4 × 2
(v)	7 × 0	(vi)	5 × 7
(vii)	6 × 5	(viii)	4 × 10
(ix)	5 × 1	(x)	2 × 7

END

Ref : CP

LYCEUM INTERNATIONAL SCHOOLS

LYCEUM
INTERNATIONAL SCHOOLS

First Semester Examination - March 2020

Testing of Multiplication Tables

Grade 3

The purpose of the exam is to find out whether students have memorised the Multiplication Tables for their particular grades.

Instructions to Examiners

(1) Prepare a corner of the class to conduct the test. Other students should not be able to overhear the test proceedings.

(2) Before the test, assign an activity so that the students are occupied.

(3) If/When possible, a colleague may be asked to supervise the completion of the assignment/task, or the lesson.

(4) Ask the identified candidate to come to the test corner. Always use English only.

(5) Greet the candidate and ask him/her to sit down, speak slowly and clearly using a friendly tone: make him/her comfortable and relaxed.

(6) Break the ice with a few general questions.

(7) The test for the Multiplication Tables is sent by the Department of Examinations. The paper will contain three options for testing.

(8) The three options should be cut out and prepared for the test. They are to be placed face side down on the desk in front of the candidate.

(9) The student will choose one of the options and will hand it over to the teacher. Keep in mind that the student should not see the questions which are printed on the paper.

(10) The examiner could now proceed to ask the questions. There is a total of ten questions in each option.

(11) The student is given ten to twelve seconds to respond. No mark is allocated if the student is unable to respond within twelve seconds.

(12) The total obtained by the candidate shall be divided by two. Round off a fraction (i.e decimal) to the higher whole number.
E.g, 2.1 will be considered as 3.

(13) The mark should be recorded in the Student Information Book. The question paper which contains the correct and incorrect answers should be collected and attached to the written answer paper of the semester exam.

(14) When the candidate has finished reading, commend and thank the candidate, e.g. “Well done. Thank you."

END

Ref: CP

LYCEUM INTERNATIONAL SCHOOLS