LYCEUM
INTERNATIONAL SCHOOLS

First Semester Examination – March 2021

Subject	**:**	**Mathematics**
Class	**:**	**3 .....**
Duration	**:**	**2 periods**
Candidate's name	**:**	**..... Date : .....**

Instructions : $\frac{1}{2}$ mark will be deducted for missing or wrong units.

(1) Answer the following.

(i) Colour the largest number in yellow.

758 681 754

(ii) How many ?

100	100	100	10	10	10

(iii) 10 less than 800 = ----------

(iv) 537 + 300 = ----------

(v) Colour the number with 8 tens.

158 983 802

(vi) 500 + 20 + 3 = ----------

(vii) Double 15 = ----------

(viii) Write in order starting with the lightest.

653g	930g	635g	902g

----------g ----------g ----------g ----------g

(ix) 40 in words is ----------

(x) 2 more than 688 ----------

[Total = 2 x 10 = 20 marks]

contd.....to page 2

Grade 3 Mathematics contd.....from page 1

(2) i) Use the numbers given in the clouds to answer the questions.

994 754 735 783 650

a) Which two numbers round to 800 ?	b) Which two numbers round to 700 ?
------- and -------	------- and -------

(4 marks)

ii)

Write 4 numbers nearer to 50 than 40

--- ---

--- ---

(4 marks)

[Total = 8 marks]

(3) i) Find the answer in the oranges.

a) 35 +60 --------

b) 8 +5 -------

c) 49 - 21 --------

d) 73 + 8 --------

e) 727 - 300 ---------

f) 323 +11 --------

(ii) If the **answer** is an **even number** colour the leaf green.

(iii) If the **answer** is an **odd number** colour the leaf yellow.

[Total = $1\frac{1}{2}$×6 = 9 marks]

contd.....to page 3

LYCEUM INTERNATIONAL SCHOOLS

Grade 3 Mathematics contd.....from page 2

(4) (i) Tick **(✓)** the correct box.

A **B**

	True	False
• Shape A is greater than shape B	☐	☐

(1 mark)

(ii) How many of these circles are coloured ?

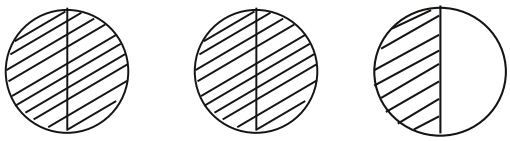

(2 marks)

(iii) What fraction of the square is

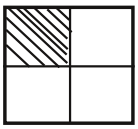

a) coloured ----------

b) not coloured ? ----------

(2×2 = 4 marks)

(iv) Colour the second shape exactly the same.

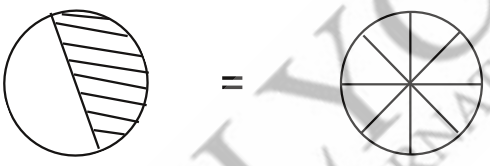

(1 mark)

[Total = 8 marks]

(5) Match.

(i) 28 + 9	48
(ii) 45 divided by 5	27
(iii) 80 ÷ 10	10
(iv) 33 multiplied by 2	7
(v) 30 ÷3	9
(vi) Multiply 9 by 3	37
(vii) 36 + 12	66
(viii) $\frac{1}{10}$ of 70	8

[Total = 8 marks]

contd.....to page 4

LYCEUM INTERNATIONAL SCHOOLS

Grade 3 Mathematics contd.....from page 3

(6) i) How much change would you get if you give £1 to pay for each of these items.

a) 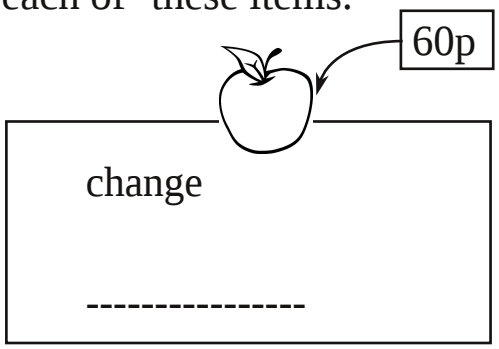

b) 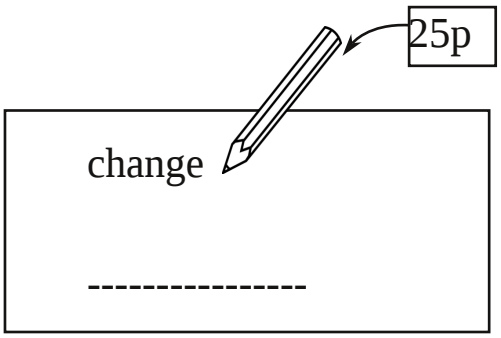

(2 × 2 = 4 marks)

ii) Lay out coins to make £2.

*£2 = 200p

a) 50p + 50p + 50p + --------

b) £1 + ---------

Make £2

c) £1 + 50p + --------

d) £1 + 20p + -------- + 50p + --------

(5 marks)

[Total = 9 marks]

(7) i) Share the apples equally among the kids.





(2 marks)

ii) How many apples does each kid get ? **Circle** the correct answer.

a) 4 b) 3 c) 8 d) 5

(1 mark)

[Total = 3 marks]

contd.....to page 5

LYCEUM INTERNATIONAL SCHOOLS

(8) i) Find the missing numbers.

a)	---------	197	198	199	---------	---------
b)	650	640	---------	620	---------	---------
c)	---------	100	150	---------	250	---------
d)	---------	---------	423	523	623	---------

(½ ×12 = 6 marks)

ii) Complete to find the score.

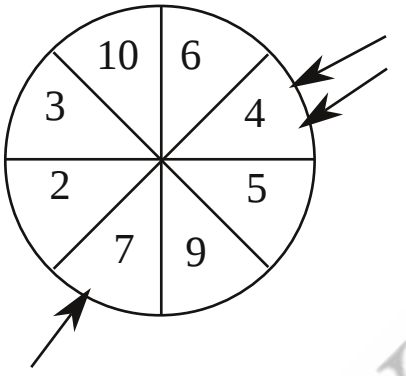

---------	×	4 ---------	=	---------
1 ---------	×	---------	=	---------
---------	+	7 ---------	=	---------

(½×6 = 3 marks)

[Total = 9 marks]

(9) i)

a) There are 10 sweets in a packet. How many sweets will be in 5 packets ? ----------

b) There were 48 birthday cards. 16 were sold. How many birthday cards are on the shelf now ? ----------

(2 × 2 = 4 marks)

ii) Colour the correct answer.

a)	Write £0.53 in pence	53p	£53
b)	6 + 2 + 3 + 11	22	23
c)	10 more than 450	550	460
d)	55 subtract 34	89	21

(4 marks)

[Total = 8 marks]

contd.....to page 6

LYCEUM INTERNATIONAL SCHOOLS

(10)

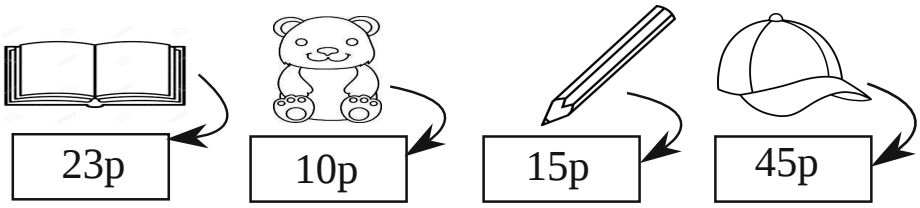

i) Find the total cost of

a) and  = ----------

b) and = ----------

(2 × 2 = 4 marks)

ii) Write each amount in pounds and pence.

a) 267 p = ----------

b) 79 p = ----------

c) 803 p = ---------- ***(2 × 3 = 6 marks)***

iii) a) 8 + ----------

b) 10 + ----------

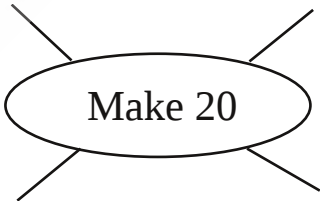

c) 12 + 1 + ----------

d) 13 + 2 + ----------

(2 × 4 = 8 marks)
[Total = 18 marks]

END